Math

22 QUESTIONS

DIRECTIONS

The questions in this section address a number of important math skills.
Use of a calculator is permitted for all questions.

NOTES

Unless otherwise indicated:

- All variables and expressions represent real numbers.
- Figures provided are drawn to scale.
- All figures lie in a plane.
- The domain of a given function f is the set of all real numbers x for which $f(x)$ is a real number.

REFERENCE

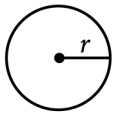

$A = \pi r^2$
$C = 2\pi r$

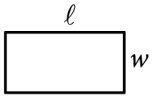

$A = \ell w$

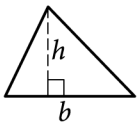

$A = \frac{1}{2}bh$

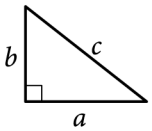

$c^2 = a^2 + b^2$

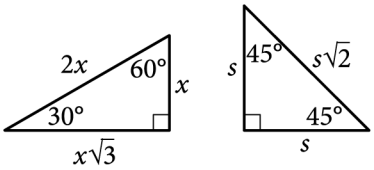

Special Right Triangles

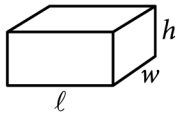

$V = \ell wh$

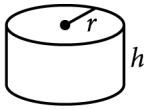

$V = \pi r^2 h$

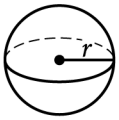

$V = \frac{4}{3}\pi r^3$

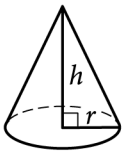

$V = \frac{1}{3}\pi r^2 h$

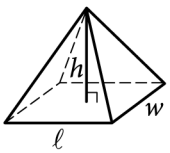

$V = \frac{1}{3}\ell wh$

The number of degrees of arc in a circle is 360.

The number of radians of arc in a circle is 2π.

The sum of the measures in degrees of the angles of a triangle is 180.

Unauthorized copying or reuse of any part of this page is illegal.

CONTINUE

For multiple-choice questions, solve each problem, choose the correct answer from the choices provided, and then circle your answer in this book. Circle only one answer for each question. If you change your mind, completely erase the circle. You will not get credit for questions with more than one answer circled, or for questions with no answers circled.

For student-produced response questions, solve each problem and write your answer next to or under the question in the test book as described below.

- Once you've written your answer, circle it clearly. You will not receive credit for anything written outside the circle, or for any questions with more than one circled answer.
- If you find **more than one correct answer**, write and circle only one answer.
- Your answer can be up to 5 characters for a **positive** answer and up to 6 characters (including the negative sign) for a **negative** answer, but no more.
- If your answer is a **fraction** that is too long (over 5 characters for positive, 6 characters for negative), write the decimal equivalent.
- If your answer is a **decimal** that is too long (over 5 characters for positive, 6 characters for negative), truncate it or round at the fourth digit.
- If your answer is a **mixed number** (such as $3\frac{1}{2}$), write it as an improper fraction (7/2) or its decimal equivalent (3.5).
- Don't include **symbols** such as a percent sign, comma, or dollar sign in your circled answer.

Unauthorized copying or reuse of any part of this page is illegal.

CONTINUE

Question ID: 963da34c

Assessment	Test	Domain	Skill	Difficulty
SAT	Math	Algebra	Linear inequalities in one or two variables	Hard

Question

A shipping service restricts the dimensions of the boxes it will ship for a certain type of service. The restriction states that for boxes shaped like rectangular prisms, the sum of the perimeter of the base of the box and the height of the box cannot exceed 130 inches. The perimeter of the base is determined using the width and length of the box. If a box has a height of 60 inches and its length is 2.5 times the width, which inequality shows the allowable width x, in inches, of the box?

Answer

A. $0 < x \leq 10$

B. $0 < x \leq 11\frac{2}{3}$

C. $0 < x \leq 17\frac{1}{2}$

D. $0 < x \leq 20$

Question ID: 40c09d66

Assessment	Test	Domain	Skill	Difficulty
SAT	Math	Advanced Math	Equivalent expressions	Hard

Question

If $\frac{\sqrt{x^5}}{\sqrt[3]{x^4}} = x^{\frac{a}{b}}$ for all positive values of x, what is the value of $\frac{a}{b}$?

Question ID: 58c26db8

Assessment	Test	Domain	Skill	Difficulty
SAT	Math	Geometry and Trigonometry	Right triangles and trigonometry	Hard

Question

The perimeter of an isosceles right triangle is $18 + 18\sqrt{2}$ inches. What is the length, in inches, of the hypotenuse of this triangle?

Answer

A. 9

B. $9\sqrt{2}$

C. 18

D. $18\sqrt{2}$

Question ID: 79137c1b

Assessment	Test	Domain	Skill	Difficulty
SAT	Math	Problem-Solving and Data Analysis	Two-variable data: Models and scatterplots	Hard

Question

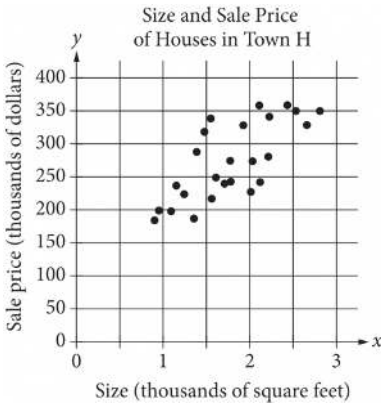

The scatterplot above shows the size x and the sale price y of 25 houses for sale in Town H. Which of the following could be an equation for a line of best fit for the data?

Answer

A. $y = 200x + 100$

B. $y = 100x + 100$

C. $y = 50x + 100$

D. $y = 100x$

Question ID: e8f9e117

Assessment	Test	Domain	Skill	Difficulty
SAT	Math	Algebra	Linear inequalities in one or two variables	Hard

Question

$$I = \frac{V}{R}$$

The formula above is Ohm's law for an electric circuit with current I, in amperes, potential difference V, in volts, and resistance R, in ohms. A circuit has a resistance of 500 ohms, and its potential difference will be generated by n six-volt batteries that produce a total potential difference of $6n$ volts. If the circuit is to have a current of no more than 0.25 ampere, what is the greatest number, n, of six-volt batteries that can be used?

Question ID: 97e50fa2

Assessment	Test	Domain	Skill	Difficulty
SAT	Math	Advanced Math	Nonlinear equations in one variable and systems of equations in two variables	Hard

Question

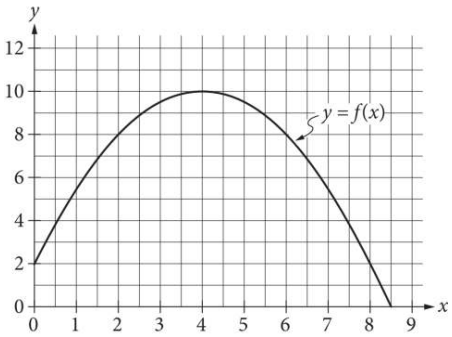

The graph of the function f, defined by $f(x) = -\frac{1}{2}(x-4)^2 + 10$, is shown in the xy-plane above. If the function g (not shown) is defined by $g(x) = -x + 10$, what is one possible value of a such that $f(a) = g(a)$?

Question ID: c0b53183

Assessment	Test	Domain	Skill	Difficulty
SAT	Math	Geometry and Trigonometry	Circles	Hard

Question

A circle has center O, and points A and U lie on the circle. Line segments AE and UE are tangent to the circle at points A and U, respectively. The distance between point O and point E is 510 centimeters and the distance between point O and point U is 78 centimeters. What is the area, in square centimeters, of quadrilateral $OAEU$?

Question ID: d0430601

Assessment	Test	Domain	Skill	Difficulty
SAT	Math	Problem-Solving and Data Analysis	Two-variable data: Models and scatterplots	Hard

Question

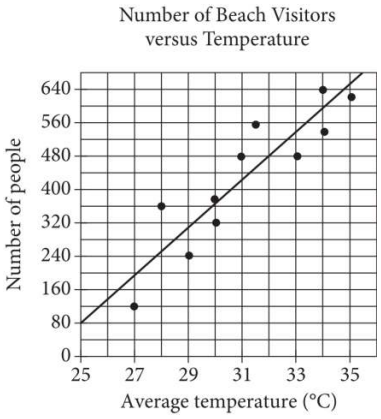

Each dot in the scatterplot above represents the temperature and the number of people who visited a beach in Lagos, Nigeria, on one of eleven different days. The line of best fit for the data is also shown. The line of best fit for the data has a slope of approximately 57. According to this estimate, how many additional people per day are predicted to visit the beach for each 5°C increase in average temperature?

Question ID: cb58833c

Assessment	Test	Domain	Skill	Difficulty
SAT	Math	Algebra	Linear equations in two variables	Hard

Question

The line with the equation $\frac{4}{5}x + \frac{1}{3}y = 1$ is graphed in the xy-plane. What is the x-coordinate of the x-intercept of the line?

Question ID: 3a9d60b2

Assessment	Test	Domain	Skill	Difficulty
SAT	Math	Advanced Math	Nonlinear equations in one variable and systems of equations in two variables	Hard

Question

$$2|4-x|+3|4-x|=25$$

What is the positive solution to the given equation?

Question ID: 947a3cde

Assessment	Test	Domain	Skill	Difficulty
SAT	Math	Geometry and Trigonometry	Lines, angles, and triangles	Hard

Question

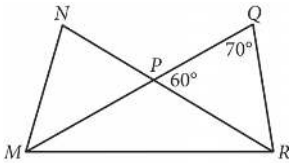

In the figure above, $\overline{MQ}$ and $\overline{NR}$ intersect at point P, $NP = QP$, and $MP = PR$. What is the measure, in degrees, of $\angle QMR$? (Disregard the degree symbol when gridding your answer.)

Question ID: 28ff3966

Assessment	Test	Domain	Skill	Difficulty
SAT	Math	Problem-Solving and Data Analysis	Percentages	Hard

Question

A square scale drawing has a side length of 55 inches, and 1 inch on the drawing represents an actual distance of 19 miles. A larger version of the same drawing is printed as a square with the side length 65% longer than the side length of the previous drawing. On the larger drawing, which of the following is closest to the actual distance, in miles, represented by 1 inch?

Answer

A. 6.65

B. 11.52

C. 31.35

D. 35.75

Question ID: 16889ef3

Assessment	Test	Domain	Skill	Difficulty
SAT	Math	Algebra	Linear functions	Hard

Question

Oil and gas production in a certain area dropped from 4 million barrels in 2000 to 1.9 million barrels in 2013. Assuming that the oil and gas production decreased at a constant rate, which of the following linear functions f best models the production, in millions of barrels, t years after the year 2000?

Answer

A. $f(t) = \frac{21}{130}t + 4$

B. $f(t) = \frac{19}{130}t + 4$

C. $f(t) = -\frac{21}{130}t + 4$

D. $f(t) = -\frac{19}{130}t + 4$

Question ID: 59d1f4b5

Assessment	Test	Domain	Skill	Difficulty
SAT	Math	Advanced Math	Nonlinear functions	Hard

Question

$M = 1{,}800(1.02)^t$

The equation above models the number of members, M, of a gym t years after the gym opens. Of the following, which equation models the number of members of the gym q quarter years after the gym opens?

Answer

A. $M = 1{,}800(1.02)^{\frac{q}{4}}$

B. $M = 1{,}800(1.02)^{4q}$

C. $M = 1{,}800(1.005)^{4q}$

D. $M = 1{,}800(1.082)^{q}$

Question ID: dc71597b

Assessment	Test	Domain	Skill	Difficulty
SAT	Math	Geometry and Trigonometry	Area and volume	Hard

Question

A right circular cone has a volume of $\frac{1}{3}\pi$ cubic feet and a height of 9 feet. What is the radius, in feet, of the base of the cone?

Answer

A. $\frac{1}{3}$

B. $\frac{1}{\sqrt{3}}$

C. $\sqrt{3}$

D. 3

Question ID: 8bb94668

Assessment	Test	Domain	Skill	Difficulty
SAT	Math	Problem-Solving and Data Analysis	Percentages	Hard

Question

The speeds of objects A, B, and C are a meters per second, b meters per second, and c meters per second, respectively. If the speed of object A is $5{,}900\%$ of the speed of object C and the speed of object C is 0.008% of the speed of object B, which expression represents the value of $a + b$ in terms of c?

Answer

A. $1{,}840c$

B. $5{,}908c$

C. $6{,}025c$

D. $12{,}559c$

Question ID: 567ac7ab

Assessment	Test	Domain	Skill	Difficulty
SAT	Math	Algebra	Systems of two linear equations in two variables	Hard

Question

One of the two equations in a linear system is $2x + 6y = 10$. The system has no solution. Which of the following could be the other equation in the system?

Answer

A. $x + 3y = 5$

B. $x + 3y = -20$

C. $6x - 2y = 0$

D. $6x + 2y = 10$

Question ID: f25a34aa

Assessment	Test	Domain	Skill	Difficulty
SAT	Math	Advanced Math	Nonlinear functions	Hard

Question

The area of a triangle is equal to x^2 square centimeters. The length of the base of the triangle is $2x + 22$ centimeters, and the height of the triangle is $x - 10$ centimeters. What is the value of x?

Question ID: 568d66a7

Assessment	Test	Domain	Skill	Difficulty
SAT	Math	Geometry and Trigonometry	Right triangles and trigonometry	Hard

Question

An isosceles right triangle has a perimeter of $94 + 94\sqrt{2}$ inches. What is the length, in inches, of one leg of this triangle?

Answer

A. 47

B. $47\sqrt{2}$

C. 94

D. $94\sqrt{2}$

Question ID: 0b46bad5

Assessment	Test	Domain	Skill	Difficulty
SAT	Math	Algebra	Linear equations in two variables	Hard

Question

$ax + by = b$

In the equation above, a and b are constants and $0 < a < b$. Which of the following could represent the graph of the equation in the xy-plane?

Answer

A.

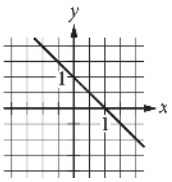

B.

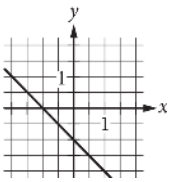

C.

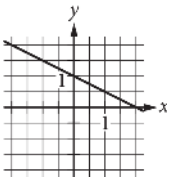

D.

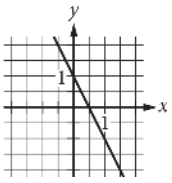

Question ID: efc469c4

Assessment	Test	Domain	Skill	Difficulty
SAT	Math	Advanced Math	Equivalent expressions	Hard

Question

$$-14(5x-2)^2+6(5x-3)^2$$

The given expression can be rewritten as $\frac{a}{6}x^2+\frac{b}{6}x+\frac{c}{6}$, where a, b, and c are constants. What is the value of $a+b+c$?

Answer

A. -612

B. -306

C. -102

D. -17

Question ID: 6933b3d9

Assessment	Test	Domain	Skill	Difficulty
SAT	Math	Geometry and Trigonometry	Right triangles and trigonometry	Hard

Question

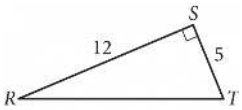

In triangle RST above, point W (not shown) lies on $\overline{RT}$. What is the value of $\cos(\angle RSW) - \sin(\angle WST)$?

Math · Module 7 · Answers

Write one answer per line. SPR: integer, decimal, or fraction.

1.	_____	**12.**	_____
2.	_____	**13.**	_____
3.	_____	**14.**	_____
4.	_____	**15.**	_____
5.	_____	**16.**	_____
6.	_____	**17.**	_____
7.	_____	**18.**	_____
8.	_____	**19.**	_____
9.	_____	**20.**	_____
10.	_____	**21.**	_____
11.	_____	**22.**	_____